Competency Practice Questions - 1

Subject: Mathematics	**Grade**: V

Q.I **Select the correct option.**

1. Rohan has drawn the following figure. He needs to identify the type of angle represented by Q. Which type of angle best describes angle Q?

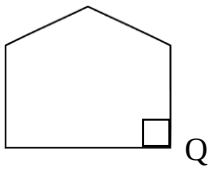

(a) Obtuse (b) Acute

(c) Right (d) Straight

2. Raji, Neha and Seema each had a chocolate bar of the same size as shown in the picture. Raji broke her chocolate into quarters. Neha broke her chocolate into one-sixth. Seema broke her chocolate into one-third.

Whose chocolate was broken into the smallest sized pieces?

(a) Raji's (b) Neha's

(c) Seema's (d) All three had equal sized pieces

3. The points scored by four friends in a video game are shown below.

Anu	Ruby	Tina	Isha
12.5	12.05	12.15	12.51

Who scored the least number of points?

(a) Anu (b) Ruby

(c) Tina (d) Isha

4. The number 10 has 4 factors - 1, 2, 5 and 10.

The table below lists the NUMBER OF FACTORS for some numbers.

Number	Number of factors
51	4
53	2
55	4
57	4
59	2

From this we can say that the number of prime numbers between 50 and 60 is

(a) 1 (b) 2

(c) 3 (d) 4

5. Which of the following is NOT drawn in the diagram?

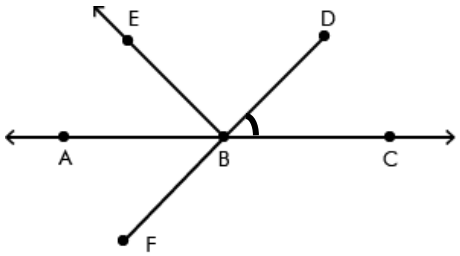

(a) Ray BE (b) Angle B

(c) Line segment CF (d) Line AC

6. Riya is designing a gift box in the shape of a cube. She needs to create a net for the cube from a single sheet of paper. Look at the options below and choose the correct net that can be folded to form a cube

(a) 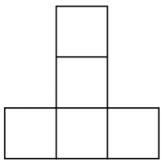

(b) 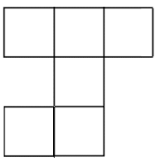

(c) 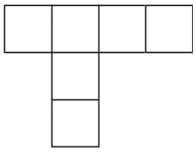

(d) 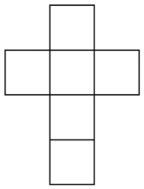

7. Shruti is making a pattern with 3D shapes as shown below.

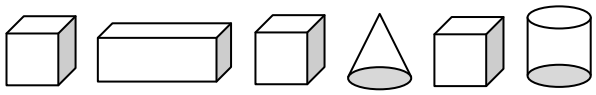

Which of the following shape she will place next in the pattern?

(a) Cuboid (b) Cube

(c) cone (d) Cylinder

8. Laura is calculating her expenses for a weekend trip, and the total is ₹3852. To simplify her budgeting, she decides to round this total to the nearest thousand. What amount will Laura use after rounding?

(a) ₹3850 (b) ₹3860

(c) ₹3900 (d) ₹4000

9. Priya is thinking of a fraction.

The clues to identify the fraction that Priya is thinking are given in the table below:

Numerator	The third multiple of 12.
Denominator	7 less than the smallest 3-digit number.

Which of the following fraction is equivalent to the fraction that Priya is thinking?

(a) $\frac{18}{31}$ (b) $\frac{12}{30}$

(c) $\frac{12}{31}$ (d) $\frac{18}{30}$

10. Four pairs of numbers are given below:

Pair 1 → 15 and 20

Pair 2 → 25 and 30

Pair 3 → 18 and 40

Pair 4 → 12 and 60

Which of the above pairs of numbers have the same LCM?

(a) Pair 1 and Pair 3 (b) Pair 1 and Pair 2

(c) Pair 2 and Pair 3 (d) Pair 1 and Pair 4

Competency Practice Questions - 1

Q.II **Do as directed.**

1. A number of cherries and strawberries a farmer collected from his farm is shown below.



Round off the number of cherries to the nearest 10 and the number of strawberries to the nearest 100.

2. Vrinda used the factor tree method to find the prime factors of 72.
She accidentally spills the ink on two of the numbers. Help her find the hidden numbers.

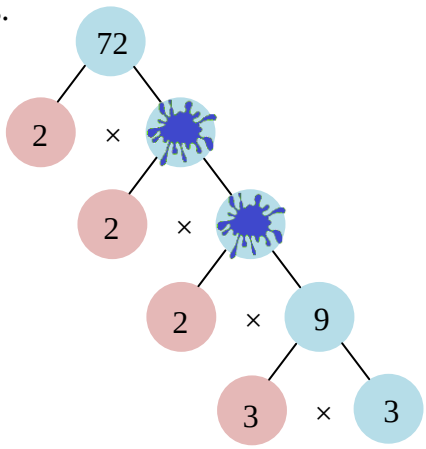

3. A box contains 80 items. Out of these, 20 items are books and $\frac{1}{5}$ of the remaining items are pencils. The rest of the items are erasers. What fraction of the items in the box are erasers?

4. Rohan's car had 35.8 litres of fuel at the beginning of a trip. After driving for a while, he found that there were only 12.65 litres left in the tank. How much fuel did the car consume during the trip?

5. The figure given alongside represents a map of roads in a city.

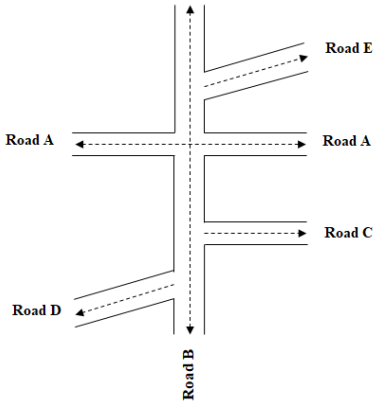

   a. Name the parallel lines.

   b. Name the roads which are perpendicular to each other.

6. Fiza has written the following number pattern:

   1, 12, 23, 34, _____

   a. Identify the pattern in the sequence.
   b. Find the next number in the sequence.

7. Nina is working on a project to create a model of different 3D shapes. She has a cube, a cuboid, and a cylinder.

   a. Nina is looking at the front view of her model, and she sees a rectangle. What 3D shape could she be looking at?
   b. When Nina looks at the model from the side, she sees a circle. What shape is she observing from the side view?

>>>